Cambridge IGCSE

Cambridge International Examinations
Cambridge International General Certificate of Secondary Education

CANDIDATE NAME	

CENTRE NUMBER						CANDIDATE NUMBER					

6232664619

CHEMISTRY **0620/42**

Paper 4 Theory (Extended) **February/March 2017**

1 hour 15 minutes

Candidates answer on the Question Paper.

No Additional Materials are required.

READ THESE INSTRUCTIONS FIRST

Write your Centre number, candidate number and name on all the work you hand in.
Write in dark blue or black pen.
You may use an HB pencil for any diagrams or graphs.
Do not use staples, paper clips, glue or correction fluid.
DO **NOT** WRITE IN ANY BARCODES.

Answer **all** questions.
Electronic calculators may be used.
A copy of the Periodic Table is printed on page 16.
You may lose marks if you do not show your working or if you do not use appropriate units.

At the end of the examination, fasten all your work securely together.
The number of marks is given in brackets [ ] at the end of each question or part question.

root 19

The syllabus is approved for use in England, Wales and Northern Ireland as a Cambridge International Level 1/Level 2 Certificate.

This document consists of **14** printed pages and **2** blank pages.

© UCLES 2017

CAMBRIDGE International Examinations

www.root19.com +91 - 9969 353 391

1 **(a)** Five organic compounds have the following structures.

A

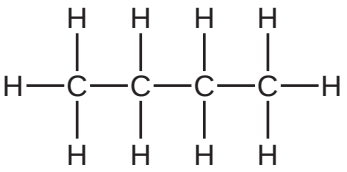

B

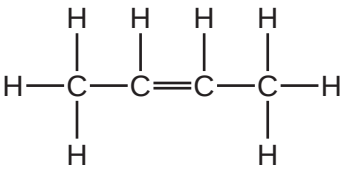

C

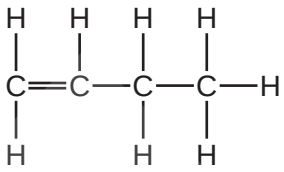

D

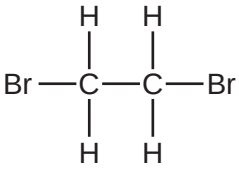

E

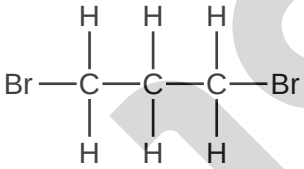

(i) Which compound is butane?

..... [1]

(ii) Which **two** compounds are structural isomers of each other?

..... [1]

(iii) Which compound can be made by reacting an alkene with bromine?

..... [1]

(iv) Which compound is a saturated hydrocarbon?

..... [1]

(v) Which compound has the empirical formula C_2H_5?

..... [1]

(vi) Name the **two** products made during the complete combustion of compound **C**.

..... [1]

© UCLES 2017

www.root19.com
+91 - 9969 353 391

(b) Petroleum can be separated into useful substances using the apparatus shown.

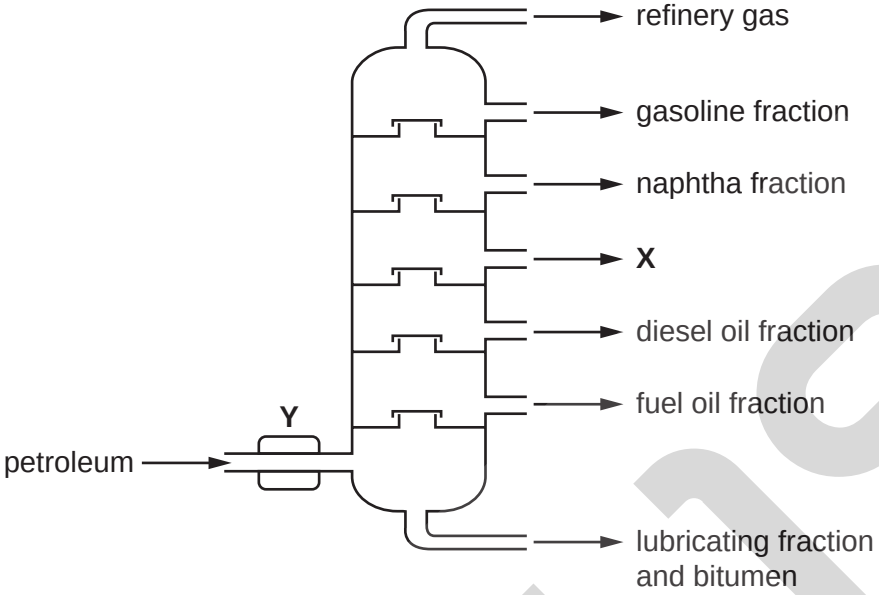

(i) Name the fraction which is the most viscous.

..... [1]

(ii) Name the fraction with the smallest molecules.

..... [1]

(iii) Name the fraction which has the weakest attractive forces between molecules.

..... [1]

(iv) Fraction **X** is used as jet fuel.

Name fraction **X**.

..... [1]

(v) What happens at point **Y** on the diagram?

..... [1]

[Total: 11]

© UCLES 2017
www.root19.com

+91 - 9969 353 391

2 Silver dichromate, $Ag_2Cr_2O_7$, is a red insoluble salt.

Silver dichromate can be made by reacting silver nitrate solution with ammonium dichromate solution. The chemical equation for the reaction is shown.

$$2AgNO_3(aq) + (NH_4)_2Cr_2O_7(aq) \rightarrow 2NH_4NO_3(aq) + Ag_2Cr_2O_7(s)$$

(a) Describe how you could obtain pure dry solid silver dichromate after mixing silver nitrate solution and ammonium dichromate solution.

.....

.....

.....

..... [3]

(b) **(i)** The charge on a silver ion is +1.

Deduce the charge on the dichromate ion in $Ag_2Cr_2O_7$.

..... [1]

(ii) Write the ionic equation for the formation of silver dichromate in this reaction.
State symbols are **not** required.

..... [1]

(c) Dilute aqueous sodium hydroxide was added to the ammonium nitrate solution made in the reaction. The mixture was then warmed and damp Universal Indicator paper was held above the mixture.

State and explain what would happen to the Universal Indicator paper.

.....

.....

..... [2]

© UCLES 2017
www.root19.com

+91 - 9969 353 391

(d) The apparatus shown was set up.

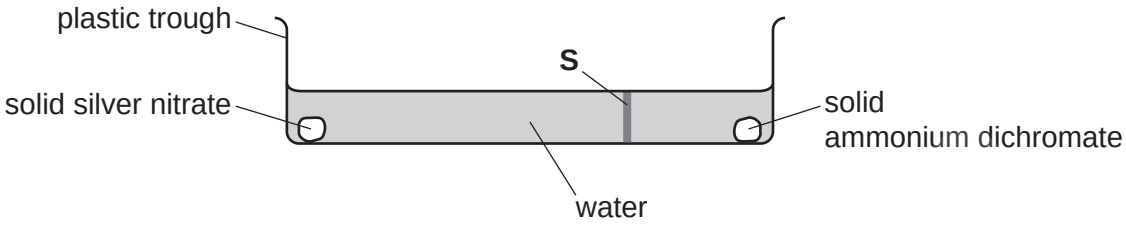

After five minutes, a red solid appeared along the line marked **S** on the diagram.

(i) Explain why a red solid appeared along the line marked **S**.

.....

.....

.....

..... [3]

(ii) The experiment was repeated at a higher temperature.

What effect, if any, would this have on the time taken for the red solid to appear? Explain your answer.

.....

..... [2]

(e) Ammonium dichromate, $(NH_4)_2Cr_2O_7$, undergoes thermal decomposition.
The products are chromium(III) oxide, nitrogen and water.

(i) What is meant by *thermal decomposition*?

.....

..... [2]

(ii) Write a chemical equation for the thermal decomposition of ammonium dichromate.

..... [2]

[Total: 16]

© UCLES 2017
www.root19.com

+91 - 9969 353 391

3 Nitryl chloride, NO_2Cl, reacts with nitric oxide, NO. The forward reaction is exothermic.

$$NO_2Cl(g) + NO(g) \rightleftharpoons NO_2(g) + NOCl(g)$$

The reaction can reach equilibrium.

(a) What is meant by the term *equilibrium* for a reversible reaction?

.....

.....

..... [2]

(b) Explain why increasing the temperature increases the rate of reaction.

.....

.....

..... [3]

(c) State and explain the effect, if any, of increasing the temperature on the position of equilibrium.

.....

.....

..... [2]

(d) State and explain the effect, if any, of decreasing the pressure on the position of equilibrium.

.....

.....

..... [2]

root19

(e) Nitrosyl chloride, NOC*l*, is a gas at room temperature. It has the structure shown.

O═N—C*l*

(i) Complete the dot-and-cross diagram to show the arrangement of the outer shell electrons in nitrosyl chloride.

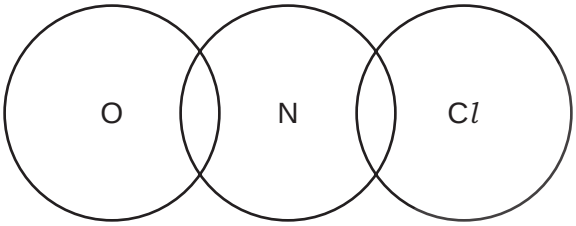

[2]

(ii) Nitrosyl chloride has a boiling point of –6 °C.

Explain why nitrosyl chloride has a low boiling point.

.....

.....

..... [2]

[Total: 13]

ROOT 19

4 Copper(II) sulfate solution was electrolysed using the apparatus shown.

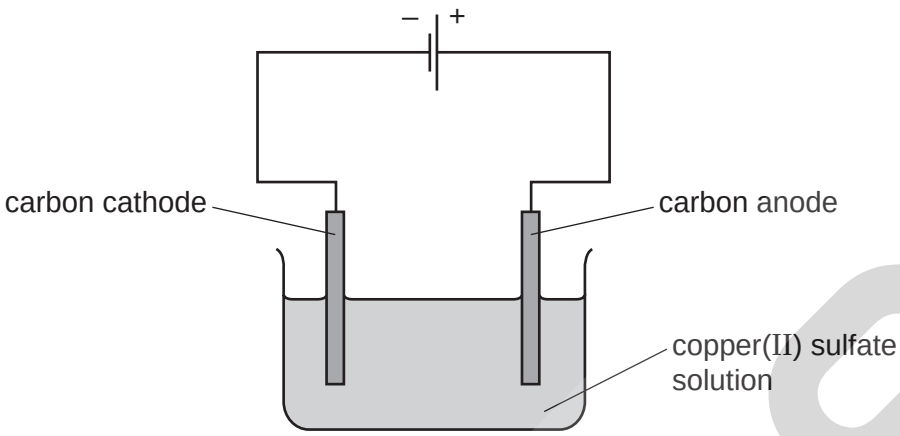

(a) **(i)** Draw an arrow on the diagram to show the direction of movement of electrons in the wire. Label the arrow **A**. [1]

(ii) Draw an arrow on the diagram to show the direction of movement of positive ions in the copper(II) sulfate solution. Label the arrow **B**. [1]

(b) Oxygen was formed at the anode and copper was formed at the cathode.

(i) The ionic half-equation for the formation of oxygen is shown.

$$4OH^- \rightarrow O_2 + 2H_2O + 4e^-$$

Explain why this reaction is oxidation.

..... [1]

(ii) Write the ionic half-equation for the formation of copper at the cathode.

..... [2]

(c) The electrolysis was repeated using copper electrodes in place of carbon electrodes.

State and explain what happens to the masses of the anode and the cathode during this electrolysis.

.....

.....

.....

.....

..... [4]

[Total: 9]

© UCLES 2017
www.root19.com

+91 - 9969 353 391

5 Iron is extracted from its ore using a blast furnace.

(a) In the blast furnace, coke burns in oxygen to produce heat energy and carbon dioxide.

How is this carbon dioxide converted into carbon monoxide in the blast furnace?

..... [1]

(b) Calcium carbonate added to the blast furnace decomposes to form calcium oxide.
Calcium oxide removes silicon(IV) oxide impurities from the iron in a neutralisation reaction.

Write a chemical equation for the reaction of calcium oxide with silicon(IV) oxide. Suggest why it is a neutralisation reaction.

.....

.....

..... [3]

(c) The main impurity in iron obtained from the blast furnace is carbon.

(i) Why must the high levels of carbon be lowered before the iron becomes a useful material?

..... [1]

(ii) How is the carbon removed from the iron?

.....

..... [1]

(d) Zinc is extracted from its ore. The ore contains zinc sulfide. The zinc sulfide is roasted in air to produce zinc oxide and sulfur dioxide.

Zinc is then obtained from the zinc oxide using a blast furnace.

(i) Give the name of the ore of zinc that contains zinc sulfide.

..... [1]

(ii) Write a chemical equation for the reaction that takes place when zinc sulfide is roasted in air.

..... [1]

(iii) Suggest why the sulfur dioxide should **not** be released into the atmosphere.

.....

..... [2]

© UCLES 2017
www.root19.com

+91 - 9969 353 391

(iv) The temperature inside the blast furnace in which zinc is extracted is about 1000 °C.

The table gives some information about substances in the blast furnace in which zinc is extracted.

substance	melting point / °C	boiling point / °C
carbon	sublimes at 4330 °C	
silicon(IV) oxide	1610	2230
zinc	420	907

Use the data in the table to explain why the zinc obtained does **not** contain high levels of impurities such as silicon(IV) oxide and carbon.

.....

.....

..... [2]

[Total: 12]

ROOT 19

6 Barium carbonate decomposes when heated.

$$BaCO_3(s) \rightarrow BaO(s) + CO_2(g)$$

(a) A student heated a 10.0 g sample of barium carbonate until it was fully decomposed.

(i) Calculate the number of moles of barium carbonate the student used.

moles of barium carbonate = ... mol [2]

(ii) Calculate the volume of carbon dioxide gas produced at room temperature and pressure. Give your answer in dm^3.

volume of carbon dioxide = ... dm^3 [1]

(b) The student added 2.00 g of the barium oxide produced to water.

$$BaO + H_2O \rightarrow Ba(OH)_2$$

Calculate the mass of barium hydroxide that can be made from 2.00 g of barium oxide. The M_r of $Ba(OH)_2$ is 171.

mass of barium hydroxide = ... g [1]

(c) A 1.50 g sample of barium hydroxide was dissolved in water. The total volume of the solution was 100 cm^3.

A 25.0 cm^3 portion of the barium hydroxide solution was titrated against hydrochloric acid. The volume of hydrochloric acid required was 18.75 cm^3.

$$Ba(OH)_2 + 2HCl \rightarrow BaCl_2 + 2H_2O$$

(i) Calculate how many moles of barium hydroxide were in the 25.0 cm^3 portion used in the titration.

moles of barium hydroxide = ... mol [1]

(ii) Calculate the concentration of the hydrochloric acid used.

concentration of hydrochloric acid = ... mol / dm^3 [2]

[Total: 7]

www.root19.com +91 - 9969 353 391

7 **(a)** The diagram shows part of the structure of an addition polymer.

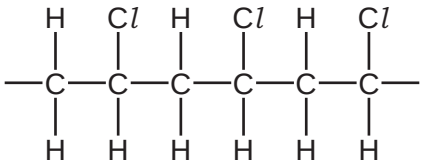

(i) Draw a circle around **one** repeat unit of the polymer. [1]

(ii) Draw the structure of the monomer from which this addition polymer is made.

[1]

(iii) Aqueous bromine is added to both the polymer and the monomer.

Describe what would be seen in each case.

with the polymer .....

with the monomer .....

[2]

(b) The diagram shows part of the structure of a condensation polymer.

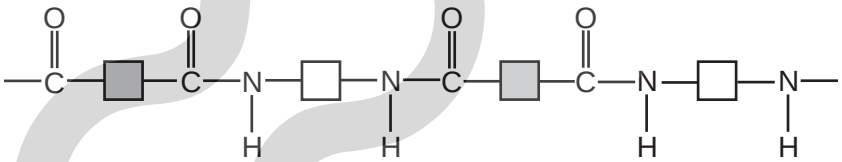

(i) What type of condensation polymer is this?

..... [1]

(ii) On the diagram, draw a circle around **one** repeat unit of the polymer. [1]

(iii) Draw the structures of the **two** monomers from which the condensation polymer is made.

[2]

www.root19.com +91 - 9969 353 391

(c) Hydrolysis of a polymer gave a compound with the following composition by mass: C, 34.61%; H, 3.85%; O, 61.54%.

(i) Calculate the empirical formula of the compound.

empirical formula = ... [3]

(ii) What additional information is needed to calculate the molecular formula of the compound?

.....

..... [1]

[Total: 12]

ROOT 19

BLANK PAGE

© UCLES 2017
www.root19.com

+91 - 9969 353 391

BLANK PAGE

Permission to reproduce items where third-party owned material protected by copyright is included has been sought and cleared where possible. Every reasonable effort has been made by the publisher (UCLES) to trace copyright holders, but if any items requiring clearance have unwittingly been included, the publisher will be pleased to make amends at the earliest possible opportunity.

To avoid the issue of disclosure of answer-related information to candidates, all copyright acknowledgements are reproduced online in the Cambridge International Examinations Copyright Acknowledgements Booklet. This is produced for each series of examinations and is freely available to download at www.cie.org.uk after the live examination series.

Cambridge International Examinations is part of the Cambridge Assessment Group. Cambridge Assessment is the brand name of University of Cambridge Local Examinations Syndicate (UCLES), which is itself a department of the University of Cambridge.

The Periodic Table of Elements

Key

atomic number
atomic symbol
name
relative atomic mass

Group

I	II											III	IV	V	VI	VII	VIII
							1 H hydrogen 1										2 He helium 4
3 Li lithium 7	4 Be beryllium 9											5 B boron 11	6 C carbon 12	7 N nitrogen 14	8 O oxygen 16	9 F fluorine 19	10 Ne neon 20
11 Na sodium 23	12 Mg magnesium 24											13 Al aluminium 27	14 Si silicon 28	15 P phosphorus 31	16 S sulfur 32	17 Cl chlorine 35.5	18 Ar argon 40
19 K potassium 39	20 Ca calcium 40	21 Sc scandium 45	22 Ti titanium 48	23 V vanadium 51	24 Cr chromium 52	25 Mn manganese 55	26 Fe iron 56	27 Co cobalt 59	28 Ni nickel 59	29 Cu copper 64	30 Zn zinc 65	31 Ga gallium 70	32 Ge germanium 73	33 As arsenic 75	34 Se selenium 79	35 Br bromine 80	36 Kr krypton 84
37 Rb rubidium 85	38 Sr strontium 88	39 Y yttrium 89	40 Zr zirconium 91	41 Nb niobium 93	42 Mo molybdenum 96	43 Tc technetium –	44 Ru ruthenium 101	45 Rh rhodium 103	46 Pd palladium 106	47 Ag silver 108	48 Cd cadmium 112	49 In indium 115	50 Sn tin 119	51 Sb antimony 122	52 Te tellurium 128	53 I iodine 127	54 Xe xenon 131
55 Cs caesium 133	56 Ba barium 137	57–71 lanthanoids	72 Hf hafnium 178	73 Ta tantalum 181	74 W tungsten 184	75 Re rhenium 186	76 Os osmium 190	77 Ir iridium 192	78 Pt platinum 195	79 Au gold 197	80 Hg mercury 201	81 Tl thallium 204	82 Pb lead 207	83 Bi bismuth 209	84 Po polonium –	85 At astatine –	86 Rn radon –
87 Fr francium –	88 Ra radium –	89–103 actinoids	104 Rf rutherfordium –	105 Db dubnium –	106 Sg seaborgium –	107 Bh bohrium –	108 Hs hassium –	109 Mt meitnerium –	110 Ds darmstadtium –	111 Rg roentgenium –	112 Cn copernicium –		114 Fl flerovium –		116 Lv livermorium –		

lanthanoids	57 La lanthanum 139	58 Ce cerium 140	59 Pr praseodymium 141	60 Nd neodymium 144	61 Pm promethium –	62 Sm samarium 150	63 Eu europium 152	64 Gd gadolinium 157	65 Tb terbium 159	66 Dy dysprosium 163	67 Ho holmium 165	68 Er erbium 167	69 Tm thulium 169	70 Yb ytterbium 173	71 Lu lutetium 175
actinoids	89 Ac actinium –	90 Th thorium 232	91 Pa protactinium 231	92 U uranium 238	93 Np neptunium –	94 Pu plutonium –	95 Am americium –	96 Cm curium –	97 Bk berkelium –	98 Cf californium –	99 Es einsteinium –	100 Fm fermium –	101 Md mendelevium –	102 No nobelium –	103 Lr lawrencium –

The volume of one mole of any gas is 24 dm^3 at room temperature and pressure (r.t.p.).

© UCLES 2019

www.Foot19.com
+91 - 9969 353 391
PMT